Are YOU Ready?

Complete these exercises to review skills you will need for this module.

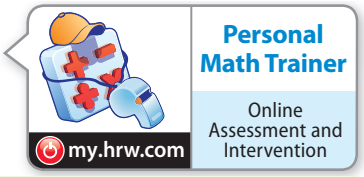

Compare Whole Numbers

EXAMPLE

3,564 ◯ 3,528	Compare digits in the thousands place: 3 = 3
3,564 ◯ 3,528	Compare digits in the hundreds place: 5 = 5
3,564 > 3,528	Compare digits in the tens place: 6 > 2

Compare. Write <, >, or =.

1. 471 ◯ 468 **2.** 5,005 ◯ 5,050 **3.** 398 ◯ 389

4. 10,973 ◯ 10,999 **5.** 8,471 ◯ 9,001 **6.** 108 ◯ 95

Order Whole Numbers

EXAMPLE

356, 348, 59, 416	Compare digits. Find the greatest number.
356, 348, 59, 416	Find the next greatest number.
356, 348, 59, 416	Find the next greatest number.
356, 348, 59, 416	Find the least number.
416 > 356 > 348 > 59	Order the numbers.

Order the numbers from greatest to least.

7. 156; 87; 177; 99

_____

8. 591; 589; 603; 600

_____

9. 2,650; 2,605; 3,056; 2,088

_____

10. 1,037; 995; 10,415; 1,029

_____

Locate Numbers on a Number Line

EXAMPLE

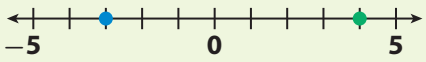

Graph +4 by starting at 0 and counting 4 units to the right. Graph −3 by starting at 0 and counting 3 units to the left.

Graph each number on the number line.

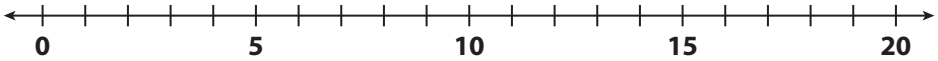

11. 12 **12.** 20 **13.** 2 **14.** 9

© Houghton Mifflin Harcourt Publishing Company